ESERCIZIO

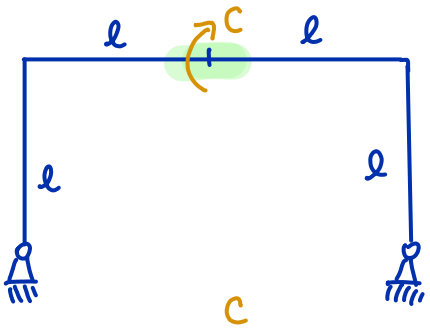

1 corpo → 3gdl

2 cerniere → 4gdv

$m > n$

$m - n = 1$

STRUTTURA 1 VOLTA IPERSTATICA

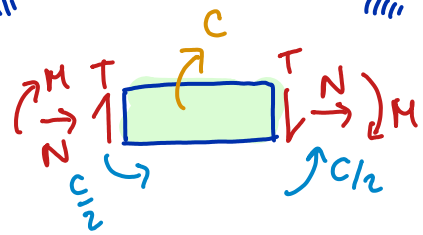

STRUTTURA SYM

CARICO ANTISYM

$N = 0$
$T \neq 0$
$M = 0$ } per ANTISYM

$\frac{C}{2}$ per EQ. al NODO

☆ POSSIAMO STUDIARE METÀ STRUTTURA INSERENDO UN CARRELLO

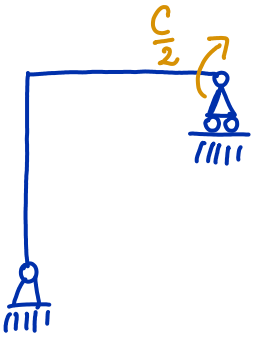

1 corpo → 3gdl

1 cerniera + 1 carrello } 3gdv

STRUTTURA ISOSTATICA

☆ ANALISI STATICA

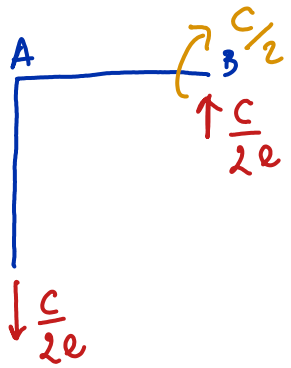

VERIFICA ISOSTATICA

$$M(B) = -\frac{C}{2} + \frac{C}{2\ell}\ell = 0 \quad ✓$$

☆ DIAGRAMMI

(N) ANTISYM

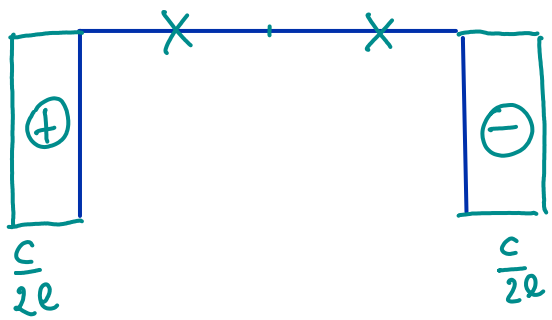

(T) SYM

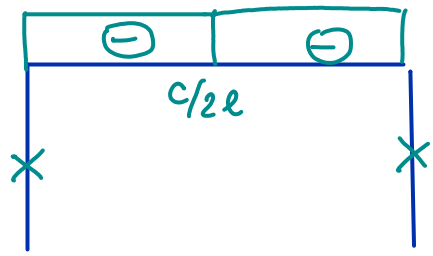
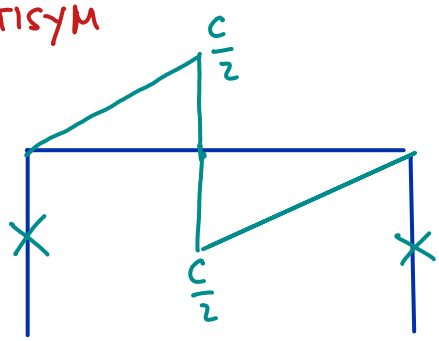
(M) ANTISYM